Technical University of Denmark

Written examination date: May 26, 2021

Course title: Computer Science Modelling

Course number: 02141

Aids allowed: All aids allowed for digital exams

Exam duration: 4 hours

Weighting: See the individual exercises

Grading: 7-step scale

Weighting: See the individual exercises

Grading: 7-step scale

Due to the Covid-19 situation the exam is conducted as a digital exam taken at home with the aids allowed for such exams. For this reason answers that can be obtained using a computer need to be properly explained and will not be considered acceptable otherwise. You must submit your answer as a single pdf-file; it is fine to integrate pictures of drawings into the pdf-file, but no attachments to the pdf-file will be considered.

If you think there are mistakes in the exam set (where in a written exam you would ask to be contacted by the teacher) please send an e-mail to fnie@dtu.dk for Formal Methods and to albl@dtu.dk for Regular Languages and Context Free Languages. Any announcements resulting from this will be communicated over the Microsoft Teams channel for the exam.

Exercises on Formal Methods

Exercise 1 (10%) Program Graphs

Consider the following program graphs:

Program graph A:

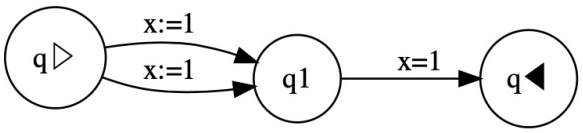

Program graph B:

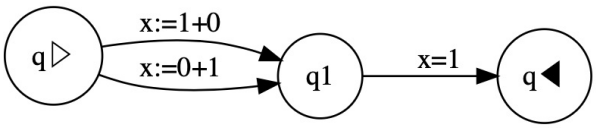

Question 1a: *For each of program graphs A and B, does it satisfy the sufficient conditions of [FM Proposition 1.22] for being a deterministic system?*
(You should explain your answer.)

Question 1b: *For each of program graphs A and B, does it satisfy the conditions of [FM Definition 1.21] for being a deterministic system?*
(You should explain your answer.)

Question 1c: *For each of program graphs A and B, does it satisfy the sufficient conditions of [FM Proposition 1.25] for being an evolving system?*
(You should explain your answer.)

Question 1d: *For each of program graphs A and B, does it satisfy the conditions of [FM Definition 1.24] for being an evolving system?*
(You should explain your answer.)

Question 1e: *For each of program graphs A and B, does there exist a program in Guarded Commands that generates the program graph according to [FM Section 2.2]?*
(You should explain your answer: in case of a positive answer show the program, in case of a negative answer argue why this cannot be the case.)

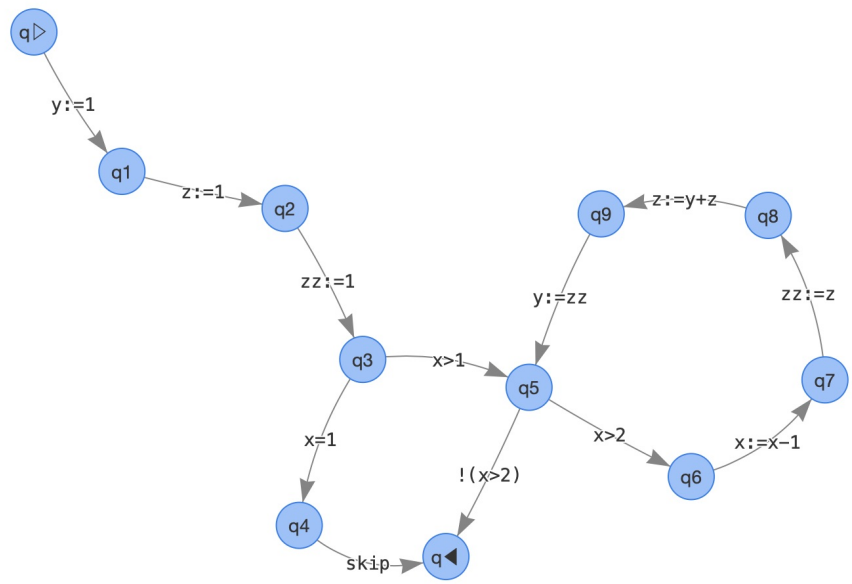

Figure 1: Program Graph C

.

Exercise 2 (20%) Program Verification and Analysis

Consider program graph C from Figure 1 and consider the following execution sequence

$$\langle q_{\triangleright}; \sigma \rangle \overset{w}{\Longrightarrow}^{*} \langle q_{\blacktriangleleft}; \sigma' \rangle$$

where σ is given by $\sigma(\mathtt{x}) = 5$, $\sigma(\mathtt{y}) = 0$, $\sigma(\mathtt{z}) = 0$, $\sigma(\mathtt{zz}) = 0$.

Question 2a: *What is σ'?*
(You should explain your answer.)

Recall the Fibonacci numbers 1, 1, 2, 3, 5, 8 ... and let us write them as $fib(1) = 1$, $fib(2) = 1$, $fib(n+2) = fib(n) + fib(n+1)$ (for $n > 0$)

Question 2b: *Complete the following partial predicate assignment*

$$\begin{array}{rcl} \mathbf{P}(q_{\triangleright}) & = & \mathtt{x} = \mathtt{n} \ \wedge \ \mathtt{n} > 0 \\ \mathbf{P}(q_5) & = & \cdots \\ \mathbf{P}(q_{\blacktriangleleft}) & = & \mathtt{z} = fib(\mathtt{n}) \end{array}$$

to a partially correct predicate assignment (in the sense of [FM, Section 3.3]), and list all the correct proof obligations that need to be checked.
(You do not have to check them in detail provided that they are correct.)

Next let us consider the detection of signs analysis as desribed in [FM, Chapter 4] and let us write an abstract state as (sx, sy, sz, szz) where sx is the sign of `x` etc. so that (0,+,-,0) represents an abstract state where `x` is 0, `y` is positive, `z` is negative and `zz` is 0.

Question 2c: *Construct the least analysis assignment* $\mathbf{A}$ *that has* $\mathbf{A}(q_\triangleright) = \{(+,+,+,+)\}$ *and give the results for* $\mathbf{A}(q_5), \mathbf{A}(q_6), \mathbf{A}(q_7), \mathbf{A}(q_\blacktriangleleft)$.
(You should briefly explain how you obtain the answer.)

Exercise 3 (10%) Information Flow

Consider the program graph C from Figure 1.

Question 3a: *Write a program in Guarded Commands for which the* **edges** *function of [FM, Section 2.2] generates program graph C.*

Question 3b: *Draw the instrumented program graph [FM, Section 5.2] for the program constructed above (and that generates the program graph C).*

Question 34: *Would we obtain a secure program (in the sense that* **sec** *of [FM, Section 5.3] gives true) if we take* `x` *to be private and* `y`, `z`, *and* `zz` *to be public (using the confidentiality lattice [FM, Figure 5.7])?*
(You should explain your answer.)

Exercise 4 (10%) Model Checking

Consider the program graph C from Figure 1 and the transition system constructed from it as explained in [FM, Section 6.4]. (Since the variables take values in the integers the transition system will have infinitely many states and therefore we shall not draw it.) But let us change the set of atomic propositions to include formulae of the form $x = n$ where x is a program variable (i.e. one of `x`, `y`, `z`, `zz`) and n is an integer. The label function we need is then defined by

$$\mathbf{L}\langle q; \sigma\rangle = \{\triangleright \mid q = q_\triangleright\} \cup \{\blacktriangleleft \mid q = q_\blacktriangleleft\} \cup \{x = n \mid \sigma(x) = n\}$$

Question 4a: *Does the formula* $\triangleright \wedge \ \mathtt{x} = 5 \Rightarrow \mathbf{EF}\,(\blacktriangleleft \wedge \mathtt{z} = 3)$ *hold for the transition system?*
(You should explain your answer but do not have to be formal.)

Question 4b: *Does the formula* $\triangleright \wedge \ \mathtt{x} = 5 \Rightarrow \mathbf{AF}\,(\blacktriangleleft \wedge \mathtt{z} = 3)$ *hold for the transition system?*
(You should explain your answer but do not have to be formal.)

Question 4c: *Does the formula* $\triangleright \wedge \ \mathtt{x} = 5 \Rightarrow \mathbf{EF}\,(\blacktriangleleft \wedge \mathtt{z} = 5)$ *hold for the transition system?*

(You should explain your answer but do not have to be formal.)

Question 4d: *Does the formula* $\triangleright \wedge\ \mathtt{x} = 5 \Rightarrow \mathbf{AF}\,(\blacktriangleleft \wedge \mathtt{z} = 5)$ *hold for the transition system?*
(You should explain your answer but do not have to be formal.)

Question 4e: *Does the formula* $\triangleright \Rightarrow \mathbf{EF}\ \blacktriangleleft$ *hold for the transition system?*
(You should explain your answer but do not have to be formal.)

Question 4f: *Does the formula* $\triangleright \Rightarrow \mathbf{AF}\ \blacktriangleleft$ *hold for the transition system?*
(You should explain your answer but do not have to be formal.)

Question 4g: *Does the formula* $\triangleright \wedge\ \mathtt{x} = 5 \Rightarrow \mathbf{EF}\,(\mathtt{x} = 1)$ *hold for the transition system?*
(You should explain your answer but do not have to be formal.)

Question 4h: *Does the formula* $\triangleright \wedge\ \mathtt{x} = 5 \Rightarrow \mathbf{AF}\,(\mathtt{x} = 1)$ *hold for the transition system?*
(You should explain your answer but do not have to be formal.)

Question 4i: *Does the formula* $\triangleright \wedge\ \mathtt{x} = 5 \Rightarrow \mathbf{E}(\mathtt{x} = 5\ \mathbf{U}\ \mathtt{x} = 4)$ *hold for the transition system?*
(You should explain your answer but do not have to be formal.)

Question 4j: *Does the formula* $\triangleright \wedge\ \mathtt{x} = 5 \Rightarrow \mathbf{A}(\mathtt{x} = 5\ \mathbf{U}\ \mathtt{x} = 4)$ *hold for the transition system?*
(You should explain your answer but do not have to be formal.)

Exercises on Context-free Languages

Exercise 5 (25%)

In the lectures on program verification you were introduced to predicates. The following grammar provides a syntax for predicates similar to the one you have seen in the course:

$$
\begin{array}{lcl}
F & \rightarrow & \texttt{true} \mid F \texttt{ and } F \mid \texttt{not } F \mid \texttt{exists } V \texttt{ st } F \mid V \texttt{ equals } V \\
V & \rightarrow & \texttt{x} \mid V \texttt{ prime}
\end{array}
$$

where the set of non-terminal symbols is $N = \{F, V\}$, the set of terminal symbols is $T = \{\texttt{true}, \texttt{and}, \texttt{not}, \texttt{exists}, \texttt{st}, \texttt{equals}, \texttt{x}, \texttt{prime}\}$ and the initial symbol is F. Predicates are all strings accepted by the grammar.

(a) Design a set of datatypes that are suitable to store abstract representations (ASTs) of predicates and show how the formula

```
exists x prime st x equals x prime
```

would be represented as a value of your datatype.

(b) Consider the predicate composition operators `and`, `not` and `exist...st`. Fill the table below as follows. In the cell corresponding to row x and column y write YES if, according to the above grammar, the operators x and y can yield an ambiguity. Otherwise, write NO.

	`not`	`and`	`exists...st`
`not`			
`and`			
`exists...st`			

(c) For each of ambiguity identified in (b), showcase the ambiguity by providing an example of a formula that has at least two distinct parse trees.

(d) Consider the PDA $(\{q\}, T, T \cup N, \delta, q, F, \{q\})$ where the transition function

δ is defined as follows:

$$
\begin{array}{rcl}
\delta(q, \epsilon, F) & = & \{(q, F\texttt{and}F), (q, V\texttt{equals}V)\} \\
\delta(q, \texttt{true}, F) & = & \{(q, \epsilon)\} \\
\delta(q, \texttt{not}, F) & = & \{(q, F)\} \\
\delta(q, \texttt{exists}, F) & = & \{(q, V\texttt{st}F)\} \\
\delta(q, \epsilon, V) & = & \{(q, V\texttt{prime})\} \\
\delta(q, \texttt{x}, V) & = & \{(q, \epsilon)\} \\
\delta(q, \texttt{true}, \texttt{true}) & = & \{(q, \epsilon)\} \\
\delta(q, \texttt{and}, \texttt{and}) & = & \{(q, \epsilon)\} \\
\delta(q, \texttt{not}, \texttt{not}) & = & \{(q, \epsilon)\} \\
\delta(q, \texttt{exists}, \texttt{exists}) & = & \{(q, \epsilon)\} \\
\delta(q, \texttt{st}, \texttt{st}) & = & \{(q, \epsilon)\} \\
\delta(q, \texttt{equals}, \texttt{equals}) & = & \{(q, \epsilon)\} \\
\delta(q, \texttt{x}, \texttt{x}) & = & \{(q, \epsilon)\} \\
\delta(q, \texttt{prime}, \texttt{prime}) & = & \{(q, \epsilon)\}
\end{array}
$$

Check if the example formula of exercise (a) is accepted by the PDA. Do so by showing the accepting sequence of configurations (instantaneous descriptions) of the PDA starting with the initial one

$$(q, \texttt{exists x prime st x equals x prime}, F)$$

where q is the initial state of your PDA, `exists x prime st x equals x prime` is the input string and F is the initial stack symbol.

(e) Does the PDA of (d) accept programs that are not accepted by the grammar in (a)? Explain your answer. You do not need to provide a formal answer (e.g. a formal proof); it suffices to provide the main intuitive insights of your argument.

Exercises on Regular Languages

Exercise 6 (25%)

In this exercise we consider a simple programming language, in which two functions (`foo` and `bar`) that can be composed or invoked in sequence. We will consider the following three proposals for the syntax of the programming language:

(1) The automaton A

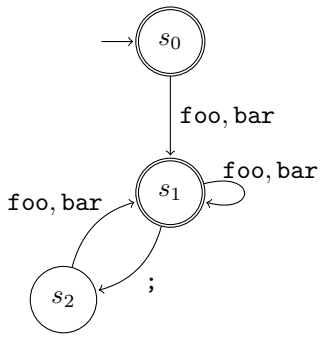

(2) The regular expression B

$$(\texttt{foo;} + \texttt{bar;})^*$$

(3) The grammar C

$$\begin{array}{lcl} S & \rightarrow & F \mid S\texttt{;}F \\ F & \rightarrow & \texttt{foo} \mid \texttt{bar} \end{array}$$

where the set $\{\texttt{foo}, \texttt{bar}, \texttt{;}\}$ acts as input alphabet for A and B, and as the set of terminal symbols for C, and where the non-terminal symbols in C are S (initial) and F.

(a) Consider the programs accepted by A, B and C, i.e. their languages $\mathcal{L}(\mathsf{A})$, $\mathcal{L}(\mathsf{B})$, $\mathcal{L}(\mathsf{C})$. Explain, for each pair of languages, their relation: Does one contain the other? Do they overlap? Answer by filling the below tables and explain your answers. You do not need to explain the (trivial) pre-filled cases.

More precisely, in the below table write YES in the cell corresponding to row x and column y if the language x is contained in the language y. Otherwise, write NO.

$\mathcal{L}(\dots) \subseteq \mathcal{L}(\dots)$	$\mathcal{L}(A)$	$\mathcal{L}(\mathsf{B})$	$\mathcal{L}(\mathsf{C})$
$\mathcal{L}(\mathsf{A})$	YES		
$\mathcal{L}(\mathsf{B})$		YES	
$\mathcal{L}(\mathsf{C})$			YES

Moreover, in the table below write YES in the cell corresponding to row x and column y if the language x overlaps with language y (i.e. they have at least one word/program in common). Otherwise, write NO.

$(\mathcal{L}(\dots) \cap \mathcal{L}(\dots)) \neq \emptyset$	$\mathcal{L}(\mathsf{A})$	$\mathcal{L}(\mathsf{B})$	$\mathcal{L}(\mathsf{C})$
$\mathcal{L}(\mathsf{A})$	YES		
$\mathcal{L}(\mathsf{B})$		YES	
$\mathcal{L}(\mathsf{C})$			YES

(b) Convert the regular expression B into an ϵ-NFA using the basic algorithm for translating a regular expression into an ϵ-NFA seen in the course. Provide the result as a transition diagram and do not apply any optimisation (i.e. do not remove ϵ-transitions).

(c) Convert the ϵ-NFA obtained in (b) into a DFA using the procedure seen in the course. Provide the result as a transition diagram. Do not include unreachable states. Do include the state $\emptyset$ if it is reachable.

(d) Is the DFA obtained in (c) minimal or can you find an equivalent one that is smaller? Explain your answer.